SINGAPORE UNIVERSITY OF SOCIAL SCIENCES

BUS105

Timed Online Assignment – July Semester 2021

Statistics

Thursday, 18 November 2021 **10:00 am – 12:30 pm**

Time allowed: 2.5 hours

INSTRUCTIONS TO STUDENTS:

1. This Timed Online Assignment (TOA) contains **FOUR (4)** questions and comprises **THIRTEEN (13)** pages (including cover page, Appendices A and B).

2. You must answer **ALL** questions.

3. If you have any queries about a question, or believe there is an error in the question, briefly explain your understanding and assumptions about that question before attempting it.

4. You MUST **submit your answers via Canvas (similar to TMA submission) at the end time of this TOA** (as stated on this cover page). The 15 minutes grace period as shown on Canvas is strictly meant for technical issues encountered during submission. Thereafter, you will not be able to submit your answers and you will be considered as having withdrawn from the course. **No appeal will be allowed.**

5. Your submission should consist of only one file and **must not exceed 500MB** in size. The file must be a Microsoft Word file saved in .docx format. All answers are to be typed. Flowcharts and graphs may be scanned or photographed and embedded in the Word file provided it does not exceed the file size limit of 500MB. Images of handwritten answers will not be marked.

6. To prevent plagiarism and collusion, your submission will be reviewed by Turnitin. The Turnitin report will only be made available to the marker and you will not be able to view it.

7. The University takes plagiarism and collusion seriously, and your Turnitin report will be examined thoroughly as part of the marking process.

8. If you need to draw a diagram or figure (and cannot do so in MS Word), take a picture of the image you have drawn and insert it in your answer. You are reminded that your overall file size of your submission of this TOA should not exceed 500MB. For a table, you are advised to copy the table given in the question or draw it in MS Word. For an equation, you are advised to write the equation in MS Word.

9. Please refer to the dataset given in the Excel data file "TOA_DATA" to answer Question 1, 3 and 4.

10. Please keep Excel work files in your computer for at least three (3) months and do not amend them after the TOA has been submitted.

You must answer ALL the questions. **(Total 100 marks)**

Question 1

An education psychologist believed that part-time students are more motivated than full-time students in their study. As such, he devised an instrument to assess a person's motivation level. The result of the test ranged from 0 to 800 points. The higher the point means the person is more motivated. This instrument was used on 46 full-time and 51 part-time students. The dataset can be found in the TOA Data File 'Question_1' worksheet.

(a) Describe ***three (3)*** measures of location and ***three (3)*** measures of dispersion. State the values of these measures for both full-time and part-time students. You are required to present the relevant Excel output table.

(12 marks)

(b) Interpret the results presented and report them as an executive summary. You should include comments on the central tendency, dispersion and histograms, and address the psychologist's belief.

(13 marks)

Question 2

(a) A marketing student in SUSS conducted a survey on students' preference for iPhone. She collected responses from 600 male and 400 female students. Of which, 400 male students used iPhone and 100 female students used other phones.

(i) Construct a contingency table based on the information given.

(ii) Identify the probability that a randomly selected student is female and uses iPhone.

(iii) Identify the probability that a randomly selected student is male or uses iPhone?

(iv) What is the probability that a randomly selected student uses iPhone given that the student is female?

(12 marks)

(b) The weight of a bag of rice is normally distributed with a mean of 5kg and standard deviation of 50g.

(i) If a bag of rice is randomly selected, identify the probability that the weight is between 4,980g and 5,080g.

(ii) If 30 bags were randomly selected, report the probability that the mean weight is greater than 5,020g.

(13 marks)

Question 3

The Exam Office in SUSS would like to find out whether gender affects students' reading time before they start their attempt on the first question in a Statistics exam. 30 male students and 30 female students were randomly selected and their reading time (in minutes) were recorded. The dataset can be found in the TOA Data File 'Question_3' worksheet.

(a) Describe the 99% confidence intervals for the mean reading time of male and female students. Based on the confidence intervals, discuss whether we can conclude that the mean reading time for both genders is similar.

(10 marks)

(b) Apply an appropriate hypothesis test at the 1% significant level to determine whether the mean reading time of both genders is similar.

(10 marks)

(c) Compare the results from Part (a) and (b). Should the conclusion be different or similar? Please provide your justification.

(5 marks)

Question 4

Ms Jenny Wong is a property agent dealing with rental of private property in Singapore. She wanted to examine what the key factors affecting the rent of private property are. She recorded the following data for her most recent 105 transactions:

RENT:	Monthly rent of property (S$)
SIZE:	Build-up area (sq ft)
TIME:	Walking time to the nearest MRT station (minutes)
POOL:	1 means the property has a swimming pool
	0 means the property does not have a swimming pool

The dataset can be found in the TOA Data File 'Question_4' worksheet. The RENT is the dependent variable and the other variables are independent variables.

(a) Describe the relationship between RENT and the ***three (3)*** independent variables by writing down the linear equation. Interpret the coefficients to show how each of the independent variables impacts the rent. You are required to present the whole regression output table.

(6 marks)

(b) Jenny wants to estimate the rent for a particular property in which the build-up area is 4,500 sq ft, the walking time to the nearest MRT station is 15 minutes, and it has a swimming pool. What is your estimate of the rent?

(4 marks)

(c) Interpret the adjusted coefficient of multiple determination. Explain what the implication in this case is.

(5 marks)

(d) Execute appropriate hypothesis tests to advise Jenny on which variable(s) is/are statistically significant at the 5% significance level. Write down your steps in detail.

(10 marks)

----- END OF PAPER -----

Appendix A: Formula sheet

Population Mean	$\mu = \frac{\sum X}{N}$	[1-1]
Sample Mean	$\overline{X} = \frac{\sum X}{n}$	[1-2]
Mean of a discrete random variable	$\mu_X = \sum P_i X_i$	[1-3]
Range	Range = Largest value – Smallest value	[1-4]
Population variance	$\sigma^2 = \frac{\sum (X-\mu)^2}{N}$	[1-5]
Population standard deviation	$\sigma = \sqrt{\frac{\sum (X-\mu)^2}{N}}$	[1-6]
Sample variance	$s^2 = \frac{\sum (X-\overline{X})^2}{n-1}$	[1-7]
Sample standard deviation	$s = \sqrt{\frac{\sum (X-\overline{X})^2}{n-1}}$	[1-8]
Variance of a discrete random variable	$\sigma_X^2 = \sum P_i (X_i - \mu_X)^2$	[1-9]
Standard deviation of a discrete random variable	$\sigma_X = \sqrt{\sum P_i (X_i - \mu_X)^2}$	[1-10]

Standard normal value	$z = \frac{X - \mu}{\sigma}$	[2-1]
Standard error of mean	$\sigma_{\overline{x}} = \frac{\sigma}{\sqrt{n}}$	[3-1]
z-value, μ and σ known	$z = \frac{\overline{X} - \mu}{\frac{\sigma}{\sqrt{n}}}$	[3-2]
Confidence interval for μ, with σ known	$\overline{X} \pm z\frac{\sigma}{\sqrt{n}}$	[4-1]
Confidence interval for μ, with σ unknown	$\overline{X} \pm t\frac{s}{\sqrt{n}}$	[4-2]
Testing a mean, σ known	$z = \frac{\overline{X} - \mu}{\frac{\sigma}{\sqrt{n}}}$	[5-1]
Testing a mean, σ unknown	$t = \frac{\overline{X} - \mu}{\frac{s}{\sqrt{n}}}$	[5-2]
Sample proportion	$p = \frac{X}{n}$	[6-1]
Coefficient of determination	$r^2 = \frac{SSR}{SS\ total} = 1 - \frac{SSE}{SS\ total}$	[6-2]

Appendix B

B.1 Areas under the Normal Curve

Example:
If $z = 1.96$, then
$P(0 \text{ to } z) = 0.4750$.

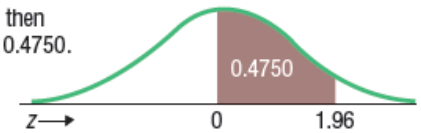

z	0.00	0.01	0.02	0.03	0.04	0.05	0.06	0.07	0.08	0.09
0.0	0.0000	0.0040	0.0080	0.0120	0.0160	0.0199	0.0239	0.0279	0.0319	0.0359
0.1	0.0398	0.0438	0.0478	0.0517	0.0557	0.0596	0.0636	0.0675	0.0714	0.0753
0.2	0.0793	0.0832	0.0871	0.0910	0.0948	0.0987	0.1026	0.1064	0.1103	0.1141
0.3	0.1179	0.1217	0.1255	0.1293	0.1331	0.1368	0.1406	0.1443	0.1480	0.1517
0.4	0.1554	0.1591	0.1628	0.1664	0.1700	0.1736	0.1772	0.1808	0.1844	0.1879
0.5	0.1915	0.1950	0.1985	0.2019	0.2054	0.2088	0.2123	0.2157	0.2190	0.2224
0.6	0.2257	0.2291	0.2324	0.2357	0.2389	0.2422	0.2454	0.2486	0.2517	0.2549
0.7	0.2580	0.2611	0.2642	0.2673	0.2704	0.2734	0.2764	0.2794	0.2823	0.2852
0.8	0.2881	0.2910	0.2939	0.2967	0.2995	0.3023	0.3051	0.3078	0.3106	0.3133
0.9	0.3159	0.3186	0.3212	0.3238	0.3264	0.3289	0.3315	0.3340	0.3365	0.3389
1.0	0.3413	0.3438	0.3461	0.3485	0.3508	0.3531	0.3554	0.3577	0.3599	0.3621
1.1	0.3643	0.3665	0.3686	0.3708	0.3729	0.3749	0.3770	0.3790	0.3810	0.3830
1.2	0.3849	0.3869	0.3888	0.3907	0.3925	0.3944	0.3962	0.3980	0.3997	0.4015
1.3	0.4032	0.4049	0.4066	0.4082	0.4099	0.4115	0.4131	0.4147	0.4162	0.4177
1.4	0.4192	0.4207	0.4222	0.4236	0.4251	0.4265	0.4279	0.4292	0.4306	0.4319
1.5	0.4332	0.4345	0.4357	0.4370	0.4382	0.4394	0.4406	0.4418	0.4429	0.4441
1.6	0.4452	0.4463	0.4474	0.4484	0.4495	0.4505	0.4515	0.4525	0.4535	0.4545
1.7	0.4554	0.4564	0.4573	0.4582	0.4591	0.4599	0.4608	0.4616	0.4625	0.4633
1.8	0.4641	0.4649	0.4656	0.4664	0.4671	0.4678	0.4686	0.4693	0.4699	0.4706
1.9	0.4713	0.4719	0.4726	0.4732	0.4738	0.4744	0.4750	0.4756	0.4761	0.4767
2.0	0.4772	0.4778	0.4783	0.4788	0.4793	0.4798	0.4803	0.4808	0.4812	0.4817
2.1	0.4821	0.4826	0.4830	0.4834	0.4838	0.4842	0.4846	0.4850	0.4854	0.4857
2.2	0.4861	0.4864	0.4868	0.4871	0.4875	0.4878	0.4881	0.4884	0.4887	0.4890
2.3	0.4893	0.4896	0.4898	0.4901	0.4904	0.4906	0.4909	0.4911	0.4913	0.4916
2.4	0.4918	0.4920	0.4922	0.4925	0.4927	0.4929	0.4931	0.4932	0.4934	0.4936
2.5	0.4938	0.4940	0.4941	0.4943	0.4945	0.4946	0.4948	0.4949	0.4951	0.4952
2.6	0.4953	0.4955	0.4956	0.4957	0.4959	0.4960	0.4961	0.4962	0.4963	0.4964
2.7	0.4965	0.4966	0.4967	0.4968	0.4969	0.4970	0.4971	0.4972	0.4973	0.4974
2.8	0.4974	0.4975	0.4976	0.4977	0.4977	0.4978	0.4979	0.4979	0.4980	0.4981
2.9	0.4981	0.4982	0.4982	0.4983	0.4984	0.4984	0.4985	0.4985	0.4986	0.4986
3.0	0.4987	0.4987	0.4987	0.4988	0.4988	0.4989	0.4989	0.4989	0.4990	0.4990

Source:
Basic Statistics for Business & Economics by Lind Douglas A., Marchal William G. & Wathen, Samuel A. (2012) 8th Edition, McGraw-Hill

B.2 Student's *t* Distribution

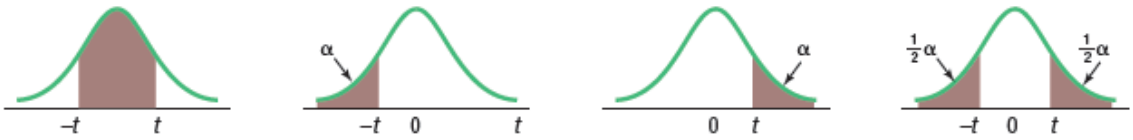

Confidence interval | Left-tailed test | Right-tailed test | Two-tailed test

	Confidence Intervals, *c*					
	80%	90%	95%	98%	99%	99.9%
	Level of Significance for One-Tailed Test, α					
df	0.10	0.05	0.025	0.01	0.005	0.0005
	Level of Significance for Two-Tailed Test, α					
	0.20	0.10	0.05	0.02	0.01	0.001
1	3.078	6.314	12.706	31.821	63.657	636.619
2	1.886	2.920	4.303	6.965	9.925	31.599
3	1.638	2.353	3.182	4.541	5.841	12.924
4	1.533	2.132	2.776	3.747	4.604	8.610
5	1.476	2.015	2.571	3.365	4.032	6.869
6	1.440	1.943	2.447	3.143	3.707	5.959
7	1.415	1.895	2.365	2.998	3.499	5.408
8	1.397	1.860	2.306	2.896	3.355	5.041
9	1.383	1.833	2.262	2.821	3.250	4.781
10	1.372	1.812	2.228	2.764	3.169	4.587
11	1.363	1.796	2.201	2.718	3.106	4.437
12	1.356	1.782	2.179	2.681	3.055	4.318
13	1.350	1.771	2.160	2.650	3.012	4.221
14	1.345	1.761	2.145	2.624	2.977	4.140
15	1.341	1.753	2.131	2.602	2.947	4.073
16	1.337	1.746	2.120	2.583	2.921	4.015
17	1.333	1.740	2.110	2.567	2.898	3.965
18	1.330	1.734	2.101	2.552	2.878	3.922
19	1.328	1.729	2.093	2.539	2.861	3.883
20	1.325	1.725	2.086	2.528	2.845	3.850
21	1.323	1.721	2.080	2.518	2.831	3.819
22	1.321	1.717	2.074	2.508	2.819	3.792
23	1.319	1.714	2.069	2.500	2.807	3.768
24	1.318	1.711	2.064	2.492	2.797	3.745
25	1.316	1.708	2.060	2.485	2.787	3.725
26	1.315	1.706	2.056	2.479	2.779	3.707
27	1.314	1.703	2.052	2.473	2.771	3.690
28	1.313	1.701	2.048	2.467	2.763	3.674
29	1.311	1.699	2.045	2.462	2.756	3.659
30	1.310	1.697	2.042	2.457	2.750	3.646
31	1.309	1.696	2.040	2.453	2.744	3.633
32	1.309	1.694	2.037	2.449	2.738	3.622
33	1.308	1.692	2.035	2.445	2.733	3.611
34	1.307	1.691	2.032	2.441	2.728	3.601
35	1.306	1.690	2.030	2.438	2.724	3.591

	Confidence Intervals, *c*					
	80%	90%	95%	98%	99%	99.9%
	Level of Significance for One-Tailed Test, α					
df	0.10	0.05	0.025	0.01	0.005	0.0005
	Level of Significance for Two-Tailed Test, α					
	0.20	0.10	0.05	0.02	0.01	0.001
36	1.306	1.688	2.028	2.434	2.719	3.582
37	1.305	1.687	2.026	2.431	2.715	3.574
38	1.304	1.686	2.024	2.429	2.712	3.566
39	1.304	1.685	2.023	2.426	2.708	3.558
40	1.303	1.684	2.021	2.423	2.704	3.551
41	1.303	1.683	2.020	2.421	2.701	3.544
42	1.302	1.682	2.018	2.418	2.698	3.538
43	1.302	1.681	2.017	2.416	2.695	3.532
44	1.301	1.680	2.015	2.414	2.692	3.526
45	1.301	1.679	2.014	2.412	2.690	3.520
46	1.300	1.679	2.013	2.410	2.687	3.515
47	1.300	1.678	2.012	2.408	2.685	3.510
48	1.299	1.677	2.011	2.407	2.682	3.505
49	1.299	1.677	2.010	2.405	2.680	3.500
50	1.299	1.676	2.009	2.403	2.678	3.496
51	1.298	1.675	2.008	2.402	2.676	3.492
52	1.298	1.675	2.007	2.400	2.674	3.488
53	1.298	1.674	2.006	2.399	2.672	3.484
54	1.297	1.674	2.005	2.397	2.670	3.480
55	1.297	1.673	2.004	2.396	2.668	3.476
56	1.297	1.673	2.003	2.395	2.667	3.473
57	1.297	1.672	2.002	2.394	2.665	3.470
58	1.296	1.672	2.002	2.392	2.663	3.466
59	1.296	1.671	2.001	2.391	2.662	3.463
60	1.296	1.671	2.000	2.390	2.660	3.460
61	1.296	1.670	2.000	2.389	2.659	3.457
62	1.295	1.670	1.999	2.388	2.657	3.454
63	1.295	1.669	1.998	2.387	2.656	3.452
64	1.295	1.669	1.998	2.386	2.655	3.449
65	1.295	1.669	1.997	2.385	2.654	3.447
66	1.295	1.668	1.997	2.384	2.652	3.444
67	1.294	1.668	1.996	2.383	2.651	3.442
68	1.294	1.668	1.995	2.382	2.650	3.439
69	1.294	1.667	1.995	2.382	2.649	3.437
70	1.294	1.667	1.994	2.381	2.648	3.435

(*continued*)

B.2 Student's *t* Distribution (*concluded*)

	Confidence Intervals, *c*					
	80%	90%	95%	98%	99%	99.9%
	Level of Significance for One-Tailed Test, α					
df	0.10	0.05	0.025	0.01	0.005	0.0005
	Level of Significance for Two-Tailed Test, α					
	0.20	0.10	0.05	0.02	0.01	0.001
71	1.294	1.667	1.994	2.380	2.647	3.433
72	1.293	1.666	1.993	2.379	2.646	3.431
73	1.293	1.666	1.993	2.379	2.645	3.429
74	1.293	1.666	1.993	2.378	2.644	3.427
75	1.293	1.665	1.992	2.377	2.643	3.425
76	1.293	1.665	1.992	2.376	2.642	3.423
77	1.293	1.665	1.991	2.376	2.641	3.421
78	1.292	1.665	1.991	2.375	2.640	3.420
79	1.292	1.664	1.990	2.374	2.640	3.418
80	1.292	1.664	1.990	2.374	2.639	3.416
81	1.292	1.664	1.990	2.373	2.638	3.415
82	1.292	1.664	1.989	2.373	2.637	3.413
83	1.292	1.663	1.989	2.372	2.636	3.412
84	1.292	1.663	1.989	2.372	2.636	3.410
85	1.292	1.663	1.988	2.371	2.635	3.409
86	1.291	1.663	1.988	2.370	2.634	3.407
87	1.291	1.663	1.988	2.370	2.634	3.406
88	1.291	1.662	1.987	2.369	2.633	3.405

	Confidence Intervals, *c*					
	80%	90%	95%	98%	99%	99.9%
	Level of Significance for One-Tailed Test, α					
df	0.10	0.05	0.025	0.01	0.005	0.0005
	Level of Significance for Two-Tailed Test, α					
	0.20	0.10	0.05	0.02	0.01	0.001
89	1.291	1.662	1.987	2.369	2.632	3.403
90	1.291	1.662	1.987	2.368	2.632	3.402
91	1.291	1.662	1.986	2.368	2.631	3.401
92	1.291	1.662	1.986	2.368	2.630	3.399
93	1.291	1.661	1.986	2.367	2.630	3.398
94	1.291	1.661	1.986	2.367	2.629	3.397
95	1.291	1.661	1.985	2.366	2.629	3.396
96	1.290	1.661	1.985	2.366	2.628	3.395
97	1.290	1.661	1.985	2.365	2.627	3.394
98	1.290	1.661	1.984	2.365	2.627	3.393
99	1.290	1.660	1.984	2.365	2.626	3.392
100	1.290	1.660	1.984	2.364	2.626	3.390
120	1.289	1.658	1.980	2.358	2.617	3.373
140	1.288	1.656	1.977	2.353	2.611	3.361
160	1.287	1.654	1.975	2.350	2.607	3.352
180	1.286	1.653	1.973	2.347	2.603	3.345
200	1.286	1.653	1.972	2.345	2.601	3.340
∞	1.282	1.645	1.960	2.326	2.576	3.291

Source:
Basic Statistics for Business & Economics by Lind Douglas A., Marchal William G. & Wathen, Samuel A. (2012) 8th Edition, McGraw-Hill

B.3 Critical Values of Chi-Square

This table contains the values of χ^2 that correspond to a specific right-tail area and specific degrees of freedom.

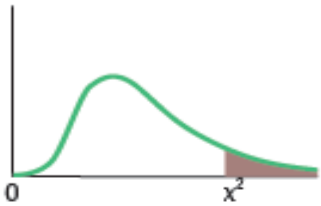

Example: With 17 *df* and a .02 area in the upper tail, $\chi^2 = 30.995$

Degrees of Freedom, *df*	Right-Tail Area			
	0.10	0.05	0.02	0.01
1	2.706	3.841	5.412	6.635
2	4.605	5.991	7.824	9.210
3	6.251	7.815	9.837	11.345
4	7.779	9.488	11.668	13.277
5	9.236	11.070	13.388	15.086
6	10.645	12.592	15.033	16.812
7	12.017	14.067	16.622	18.475
8	13.362	15.507	18.168	20.090
9	14.684	16.919	19.679	21.666
10	15.987	18.307	21.161	23.209
11	17.275	19.675	22.618	24.725
12	18.549	21.026	24.054	26.217
13	19.812	22.362	25.472	27.688
14	21.064	23.685	26.873	29.141
15	22.307	24.996	28.259	30.578
16	23.542	26.296	29.633	32.000
17	24.769	27.587	30.995	33.409
18	25.989	28.869	32.346	34.805
19	27.204	30.144	33.687	36.191
20	28.412	31.410	35.020	37.566
21	29.615	32.671	36.343	38.932
22	30.813	33.924	37.659	40.289
23	32.007	35.172	38.968	41.638
24	33.196	36.415	40.270	42.980
25	34.382	37.652	41.566	44.314
26	35.563	38.885	42.856	45.642
27	36.741	40.113	44.140	46.963
28	37.916	41.337	45.419	48.278
29	39.087	42.557	46.693	49.588
30	40.256	43.773	47.962	50.892

Source:
Basic Statistics for Business & Economics by Lind Douglas A., Marchal William G. & Wathen, Samuel A. (2012) 8th Edition, McGraw-Hill

B.4 Critical Values of the *F* Distribution at a 5 Percent Level of Significance

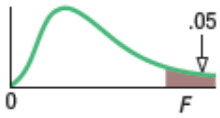

Degrees of Freedom for the Denominator	Degrees of Freedom for the Numerator															
	1	2	3	4	5	6	7	8	9	10	12	15	20	24	30	40
1	161	200	216	225	230	234	237	239	241	242	244	246	248	249	250	251
2	18.5	19.0	19.2	19.2	19.3	19.3	19.4	19.4	19.4	19.4	19.4	19.4	19.4	19.5	19.5	19.5
3	10.1	9.55	9.28	9.12	9.01	8.94	8.89	8.85	8.81	8.79	8.74	8.70	8.66	8.64	8.62	8.59
4	7.71	6.94	6.59	6.39	6.26	6.16	6.09	6.04	6.00	5.96	5.91	5.86	5.80	5.77	5.75	5.72
5	6.61	5.79	5.41	5.19	5.05	4.95	4.88	4.82	4.77	4.74	4.68	4.62	4.56	4.53	4.50	4.46
6	5.99	5.14	4.76	4.53	4.39	4.28	4.21	4.15	4.10	4.06	4.00	3.94	3.87	3.84	3.81	3.77
7	5.59	4.74	4.35	4.12	3.97	3.87	3.79	3.73	3.68	3.64	3.57	3.51	3.44	3.41	3.38	3.34
8	5.32	4.46	4.07	3.84	3.69	3.58	3.50	3.44	3.39	3.35	3.28	3.22	3.15	3.12	3.08	3.04
9	5.12	4.26	3.86	3.63	3.48	3.37	3.29	3.23	3.18	3.14	3.07	3.01	2.94	2.90	2.86	2.83
10	4.96	4.10	3.71	3.48	3.33	3.22	3.14	3.07	3.02	2.98	2.91	2.85	2.77	2.74	2.70	2.66
11	4.84	3.98	3.59	3.36	3.20	3.09	3.01	2.95	2.90	2.85	2.79	2.72	2.65	2.61	2.57	2.53
12	4.75	3.89	3.49	3.26	3.11	3.00	2.91	2.85	2.80	2.75	2.69	2.62	2.54	2.51	2.47	2.43
13	4.67	3.81	3.41	3.18	3.03	2.92	2.83	2.77	2.71	2.67	2.60	2.53	2.46	2.42	2.38	2.34
14	4.60	3.74	3.34	3.11	2.96	2.85	2.76	2.70	2.65	2.60	2.53	2.46	2.39	2.35	2.31	2.27
15	4.54	3.68	3.29	3.06	2.90	2.79	2.71	2.64	2.59	2.54	2.48	2.40	2.33	2.29	2.25	2.20
16	4.49	3.63	3.24	3.01	2.85	2.74	2.66	2.59	2.54	2.49	2.42	2.35	2.28	2.24	2.19	2.15
17	4.45	3.59	3.20	2.96	2.81	2.70	2.61	2.55	2.49	2.45	2.38	2.31	2.23	2.19	2.15	2.10
18	4.41	3.55	3.16	2.93	2.77	2.66	2.58	2.51	2.46	2.41	2.34	2.27	2.19	2.15	2.11	2.06
19	4.38	3.52	3.13	2.90	2.74	2.63	2.54	2.48	2.42	2.38	2.31	2.23	2.16	2.11	2.07	2.03
20	4.35	3.49	3.10	2.87	2.71	2.60	2.51	2.45	2.39	2.35	2.28	2.20	2.12	2.08	2.04	1.99
21	4.32	3.47	3.07	2.84	2.68	2.57	2.49	2.42	2.37	2.32	2.25	2.18	2.10	2.05	2.01	1.96
22	4.30	3.44	3.05	2.82	2.66	2.55	2.46	2.40	2.34	2.30	2.23	2.15	2.07	2.03	1.98	1.94
23	4.28	3.42	3.03	2.80	2.64	2.53	2.44	2.37	2.32	2.27	2.20	2.13	2.05	2.01	1.96	1.91
24	4.26	3.40	3.01	2.78	2.62	2.51	2.42	2.36	2.30	2.25	2.18	2.11	2.03	1.98	1.94	1.89
25	4.24	3.39	2.99	2.76	2.60	2.49	2.40	2.34	2.28	2.24	2.16	2.09	2.01	1.96	1.92	1.87
30	4.17	3.32	2.92	2.69	2.53	2.42	2.33	2.27	2.21	2.16	2.09	2.01	1.93	1.89	1.84	1.79
40	4.08	3.23	2.84	2.61	2.45	2.34	2.25	2.18	2.12	2.08	2.00	1.92	1.84	1.79	1.74	1.69
60	4.00	3.15	2.76	2.53	2.37	2.25	2.17	2.10	2.04	1.99	1.92	1.84	1.75	1.70	1.65	1.59
120	3.92	3.07	2.68	2.45	2.29	2.18	2.09	2.02	1.96	1.91	1.83	1.75	1.66	1.61	1.55	1.50
∞	3.84	3.00	2.60	2.37	2.21	2.10	2.01	1.94	1.88	1.83	1.75	1.67	1.57	1.52	1.46	1.39

Source:
Basic Statistics for Business & Economics by Lind Douglas A., Marchal William G. & Wathen, Samuel A. (2012) 8th Edition, McGraw-Hill

B.4 Critical Values of the *F* Distribution at a 1 Percent Level of Significance (*concluded*)

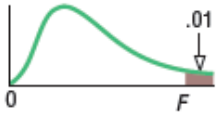

Degrees of Freedom for the Denominator	Degrees of Freedom for the Numerator															
	1	2	3	4	5	6	7	8	9	10	12	15	20	24	30	40
1	4052	5000	5403	5625	5764	5859	5928	5981	6022	6056	6106	6157	6209	6235	6261	6287
2	98.5	99.0	99.2	99.2	99.3	99.3	99.4	99.4	99.4	99.4	99.4	99.4	99.4	99.5	99.5	99.5
3	34.1	30.8	29.5	28.7	28.2	27.9	27.7	27.5	27.3	27.2	27.1	26.9	26.7	26.6	26.5	26.4
4	21.2	18.0	16.7	16.0	15.5	15.2	15.0	14.8	14.7	14.5	14.4	14.2	14.0	13.9	13.8	13.7
5	16.3	13.3	12.1	11.4	11.0	10.7	10.5	10.3	10.2	10.1	9.89	9.72	9.55	9.47	9.38	9.29
6	13.7	10.9	9.78	9.15	8.75	8.47	8.26	8.10	7.98	7.87	7.72	7.56	7.40	7.31	7.23	7.14
7	12.2	9.55	8.45	7.85	7.46	7.19	6.99	6.84	6.72	6.62	6.47	6.31	6.16	6.07	5.99	5.91
8	11.3	8.65	7.59	7.01	6.63	6.37	6.18	6.03	5.91	5.81	5.67	5.52	5.36	5.28	5.20	5.12
9	10.6	8.02	6.99	6.42	6.06	5.80	5.61	5.47	5.35	5.26	5.11	4.96	4.81	4.73	4.65	4.57
10	10.0	7.56	6.55	5.99	5.64	5.39	5.20	5.06	4.94	4.85	4.71	4.56	4.41	4.33	4.25	4.17
11	9.65	7.21	6.22	5.67	5.32	5.07	4.89	4.74	4.63	4.54	4.40	4.25	4.10	4.02	3.94	3.86
12	9.33	6.93	5.95	5.41	5.06	4.82	4.64	4.50	4.39	4.30	4.16	4.01	3.86	3.78	3.70	3.62
13	9.07	6.70	5.74	5.21	4.86	4.62	4.44	4.30	4.19	4.10	3.96	3.82	3.66	3.59	3.51	3.43
14	8.86	6.51	5.56	5.04	4.69	4.46	4.28	4.14	4.03	3.94	3.80	3.66	3.51	3.43	3.35	3.27
15	8.68	6.36	5.42	4.89	4.56	4.32	4.14	4.00	3.89	3.80	3.67	3.52	3.37	3.29	3.21	3.13
16	8.53	6.23	5.29	4.77	4.44	4.20	4.03	3.89	3.78	3.69	3.55	3.41	3.26	3.18	3.10	3.02
17	8.40	6.11	5.18	4.67	4.34	4.10	3.93	3.79	3.68	3.59	3.46	3.31	3.16	3.08	3.00	2.92
18	8.29	6.01	5.09	4.58	4.25	4.01	3.84	3.71	3.60	3.51	3.37	3.23	3.08	3.00	2.92	2.84
19	8.18	5.93	5.01	4.50	4.17	3.94	3.77	3.63	3.52	3.43	3.30	3.15	3.00	2.92	2.84	2.76
20	8.10	5.85	4.94	4.43	4.10	3.87	3.70	3.56	3.46	3.37	3.23	3.09	2.94	2.86	2.78	2.69
21	8.02	5.78	4.87	4.37	4.04	3.81	3.64	3.51	3.40	3.31	3.17	3.03	2.88	2.80	2.72	2.64
22	7.95	5.72	4.82	4.31	3.99	3.76	3.59	3.45	3.35	3.26	3.12	2.98	2.83	2.75	2.67	2.58
23	7.88	5.66	4.76	4.26	3.94	3.71	3.54	3.41	3.30	3.21	3.07	2.93	2.78	2.70	2.62	2.54
24	7.82	5.61	4.72	4.22	3.90	3.67	3.50	3.36	3.26	3.17	3.03	2.89	2.74	2.66	2.58	2.49
25	7.77	5.57	4.68	4.18	3.85	3.63	3.46	3.32	3.22	3.13	2.99	2.85	2.70	2.62	2.54	2.45
30	7.56	5.39	4.51	4.02	3.70	3.47	3.30	3.17	3.07	2.98	2.84	2.70	2.55	2.47	2.39	2.30
40	7.31	5.18	4.31	3.83	3.51	3.29	3.12	2.99	2.89	2.80	2.66	2.52	2.37	2.29	2.20	2.11
60	7.08	4.98	4.13	3.65	3.34	3.12	2.95	2.82	2.72	2.63	2.50	2.35	2.20	2.12	2.03	1.94
120	6.85	4.79	3.95	3.48	3.17	2.96	2.79	2.66	2.56	2.47	2.34	2.19	2.03	1.95	1.86	1.76
∞	6.63	4.61	3.78	3.32	3.02	2.80	2.64	2.51	2.41	2.32	2.18	2.04	1.88	1.79	1.70	1.59

Source:
Basic Statistics for Business & Economics by Lind Douglas A., Marchal William G. & Wathen, Samuel A. (2012) 8th Edition, McGraw-Hill